1 Sonya is thinking of a number. She wrote multiples of her number in a box, as shown.

16	32
24	
20	12

Which of the following could be Sonya's number?

Ⓐ 3

Ⓑ 4

Ⓒ 6

Ⓓ 8

2 Find the sum.

$$\frac{6}{100} + \frac{3}{10}$$

Ⓐ $\frac{36}{100}$

Ⓑ $\frac{9}{110}$

Ⓒ $\frac{63}{110}$

Ⓓ $\frac{36}{200}$

This question has three parts. Be sure to label each part of your response.

3 This table shows the length, in kilometers, of each trail in a park.

Park Trails

Trail	Length (kilometers)
Blue	1.6
Red	0.6
White	1.65
Green	0.8
Purple	1.58

A. Which trail has the shortest length?

B. List the trails in order of length from shortest to longest.

C. Which trail has a length closest to the length of the Blue Trail? Show or explain how you got your answer.

Write your answers on the next page.

4 Carmen wrote this expression in a notebook.

$$1 + 1 + \frac{1}{4} + \frac{2}{4}$$

Which of these is **not** equal to Carmen's expression?

Ⓐ $\frac{3}{4} + 2$

Ⓑ $\frac{3}{4} + 2 + \frac{1}{4}$

Ⓒ $1 + 1 + \frac{2}{4} + \frac{1}{4}$

Ⓓ $1 + 1 + \frac{1}{4} + \frac{1}{4} + \frac{1}{4}$

5 Four points are shown on this number line.

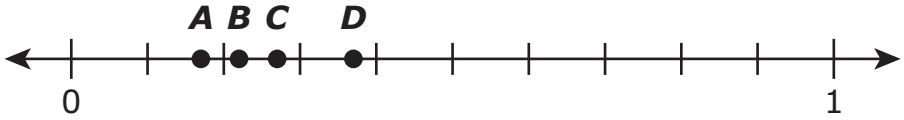

Which point represents where 0.27 is located on the number line?

Ⓐ point *A*

Ⓑ point *B*

Ⓒ point *C*

Ⓓ point *D*

This question has three parts. Be sure to label each part of your response.

6 A playground has a basketball court and a sandbox. The length of the sandbox is 18 feet.

A. The length of the basketball court is 5 times the length of the sandbox.

Write an equation that can be used to find *b*, the length in feet of the basketball court.

B. What is the length, in feet, of the basketball court? Show or explain how you got your answer.

C. The length of the playground is twice the length of the basketball court **and** the sandbox added together.

What is the total length, in feet, of the playground? Show or explain how you got your answer.

Write your answers on the next page.

7 Which pairs of models show a correct comparison of $\frac{3}{5}$ and $\frac{2}{3}$?

Select the **two** correct answers.

Ⓐ

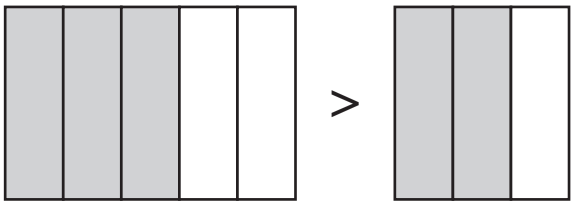

Ⓑ

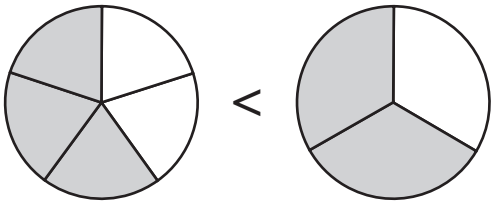

Ⓒ

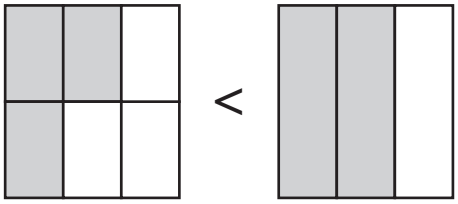

Ⓓ

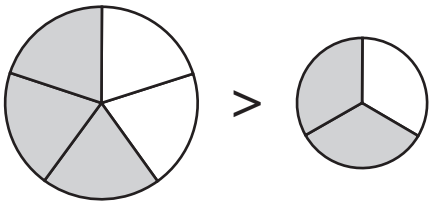

Ⓔ

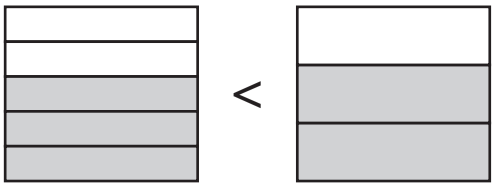

Ⓕ

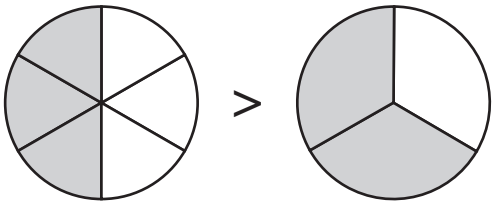

8 A carpenter measured the lengths, in inches, of some pieces of wood. The lengths are shown in this line plot.

Wood Pieces

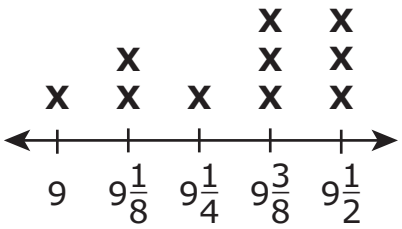

Length (inches)

The carpenter collected all the pieces of wood with a length of $9\frac{3}{8}$ inches. Then he placed those pieces end to end in a straight line.

What is the total length of the pieces of wood the carpenter placed in a straight line?

Ⓐ $17\frac{1}{8}$ inches

Ⓑ $18\frac{1}{8}$ inches

Ⓒ $27\frac{1}{8}$ inches

Ⓓ $28\frac{1}{8}$ inches

This question has two parts.

9 A teacher has two sets of stickers in different shapes to give to students.

Part A

The first set has five stickers.

Which of these stickers appear to have at least one obtuse angle?

Select the **two** correct answers.

Ⓐ 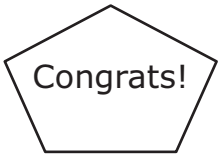

Ⓑ 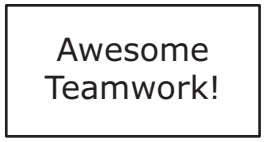

Ⓒ 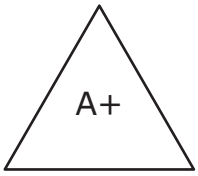

Ⓓ

Ⓔ

Part B

The second set has three triangle stickers, as shown.

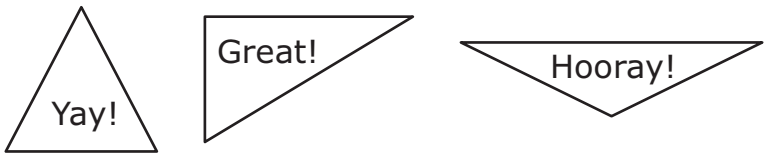

Which of these sentences correctly describes one of the stickers?

Ⓐ The "Yay!" sticker appears to be a right triangle because it has three right angles.

Ⓑ The "Great!" sticker appears to be a right triangle because it has one right angle.

Ⓒ The "Hooray!" sticker appears to be a right triangle because it has two right angles.

Ⓓ The "Hooray!" sticker appears to be a right triangle because it has one right angle.

10 An artist bought 5 yards of rope. Which of the following is equivalent to 5 yards?

Ⓐ 3 feet

Ⓑ 15 feet

Ⓒ 60 feet

Ⓓ 180 feet

11 A teacher wrote this number on the board.

24,473

The value of the digit in the thousands place is how many times the value of the digit in the hundreds place?

Enter your answer in the answer boxes at the top of the answer grid **and** completely fill the matching circles.

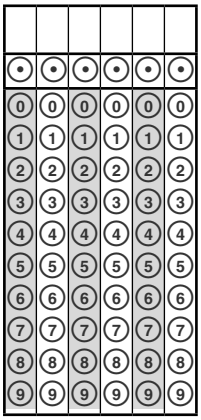

12 What is *fourteen thousand, two hundred five* written in standard form?

Enter your answer in the answer boxes at the top of the answer grid **and** completely fill the matching circles.

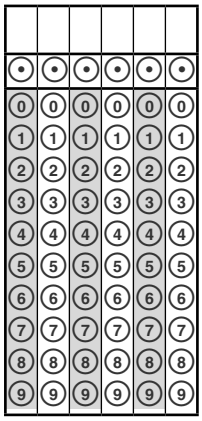

13 A dashed line is drawn on this figure.

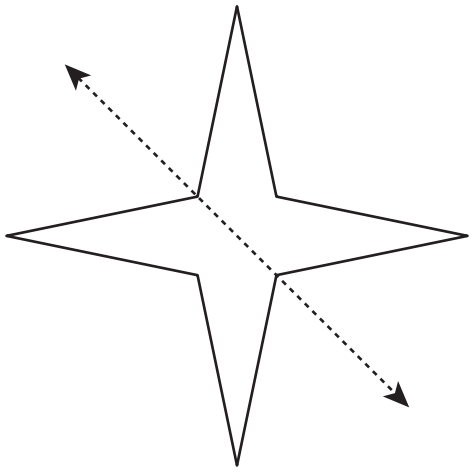

Which of these sentences are true?

Select the **two** correct answers.

Ⓐ The dashed line is a line of symmetry for the figure.

Ⓑ The dashed line is not a line of symmetry for the figure.

Ⓒ The figure has a total of 0 lines of symmetry.

Ⓓ The figure has a total of 2 lines of symmetry.

Ⓔ The figure has a total of 4 lines of symmetry.

14 Some angles are shown in this diagram.

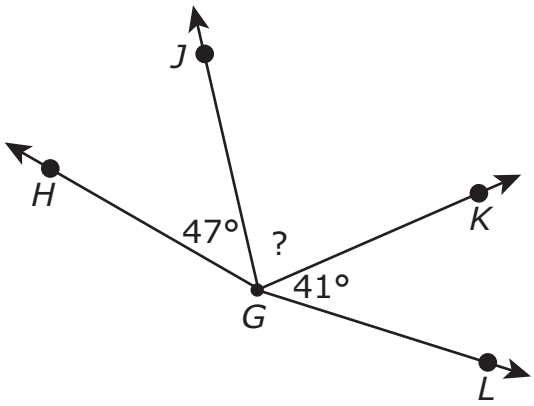

Angle *HGL* has a measure of 167°.

What is the measure of angle *JGK*?

Ⓐ 43°

Ⓑ 79°

Ⓒ 88°

Ⓓ 90°

15 Abe has 16 pins in one box and 17 pins in another box. He is hanging posters with the pins. Abe uses 4 pins to hang each poster.

What is the total number of posters Abe can hang with the pins?

Ⓐ $\frac{23}{4}$ posters

Ⓑ $\frac{33}{4}$ posters

Ⓒ 8 posters

Ⓓ 9 posters

16 Which of these statements are true?

Select the **three** correct answers.

Ⓐ 32,974 rounded to the nearest ten is 32,970

Ⓑ 32,974 rounded to the nearest ten is 33,000

Ⓒ 32,974 rounded to the nearest hundred is 32,900

Ⓓ 32,974 rounded to the nearest hundred is 33,000

Ⓔ 32,974 rounded to the nearest thousand is 33,000

Ⓕ 32,974 rounded to the nearest thousand is 34,000

17 Two protractors are used to measure angle *A* and angle *B*, as shown.

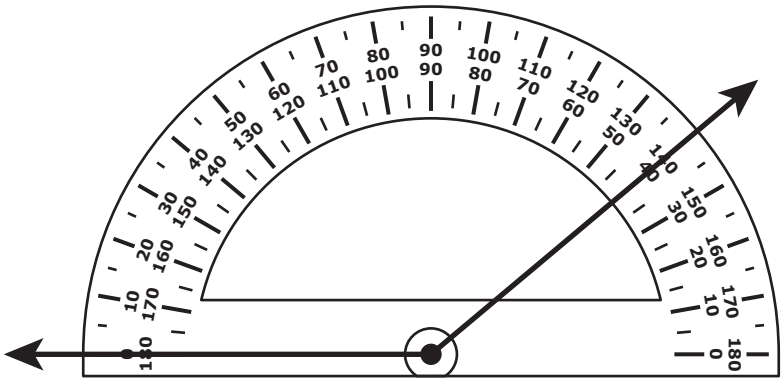

Angle *A*

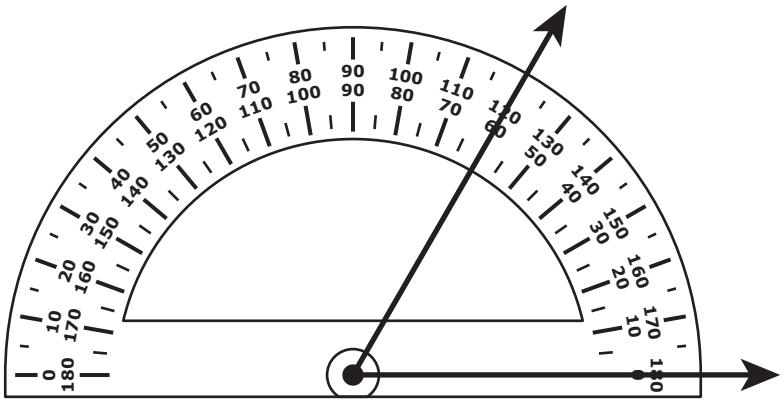

Angle *B*

Which of these shows the measures of both angles?

Ⓐ angle *A* = 40°
angle *B* = 120°

Ⓑ angle *A* = 140°
angle *B* = 120°

Ⓒ angle *A* = 40°
angle *B* = 60°

Ⓓ angle *A* = 140°
angle *B* = 60°

18 Meghan is making 5 loaves of banana bread. She needs $\frac{2}{3}$ cup of sugar for each loaf. How many cups of sugar does Meghan need altogether to make the 5 loaves?

Ⓐ $\frac{10}{15}$

Ⓑ $\frac{10}{3}$

Ⓒ $4\frac{1}{3}$

Ⓓ $5\frac{2}{3}$

19 A student wrote this subtraction problem in his notebook.

$$25{,}000 - 13{,}476 = \boxed{?}$$

What number belongs in the $\boxed{?}$ to make the student's subtraction problem true?

Ⓐ 11,524

Ⓑ 11,636

Ⓒ 12,476

Ⓓ 12,634

20 Anna made a diagram of her room and labeled the length and width, as shown.

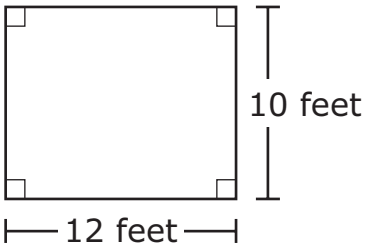

What is the area of Anna's room?

Ⓐ 44 square feet

Ⓑ 100 square feet

Ⓒ 120 square feet

Ⓓ 144 square feet