1 Lily made some cookies, as shown.

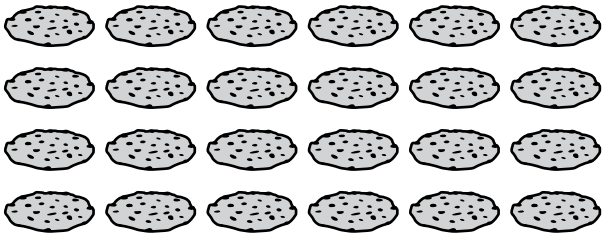

Lily made 2 times as many cookies as Tommy made. How many cookies did Tommy make?

Ⓐ 12

Ⓑ 24

Ⓒ 36

Ⓓ 48

2 Diego solved math problems each day for one week.

- On the first day, he solved 10 math problems.
- On the second day, he solved 15 math problems.
- On the third day, he solved 20 math problems.

Each day, Diego continued to solve 5 more math problems than the day before. On which day did he solve 35 math problems?

Ⓐ the fourth day

Ⓑ the fifth day

Ⓒ the sixth day

Ⓓ the seventh day

3 Which of the following shapes has **more than** one line of symmetry?

Ⓐ 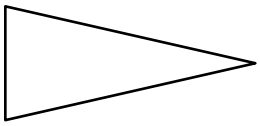

Ⓑ 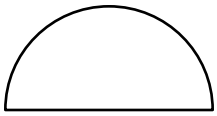

Ⓒ

Ⓓ 

This question has four parts. Be sure to label each part of your response.

4 Four friends live in different towns. They each placed a bucket outside to collect rainwater on the same night. The four buckets were labeled A, B, C, and D.

A. Bucket A and Bucket B are the same size. This diagram shows the fraction of each bucket that was filled with rainwater.



Bucket A Bucket B

Write a number sentence using >, <, or = to compare the fraction of Bucket A that was filled to the fraction of Bucket B that was filled. Show or explain how you got your answer.

B. Bucket C and Bucket D are the same size. This diagram shows the fraction of each bucket that was filled with rainwater.



Bucket C Bucket D

Which bucket, Bucket C or Bucket D, was filled with more rainwater? Explain how you got your answer.

C. This diagram shows all of the friends' buckets and the fraction of each bucket that was filled with rainwater.



One of the friends says that Bucket B and Bucket C were filled with the same amount of rainwater since $\frac{5}{6}$ of each bucket was filled with rainwater.

Is the friend correct? Explain your reasoning.

D. A weatherman in another town says that his town received **less than** $\frac{1}{2}$ inch of rainwater.

Write a fraction that represents the amount of rainwater, in inches, this town could have received. Explain how you know your answer is correct.

Write your answers on the next page.

5 A triangle is shown.

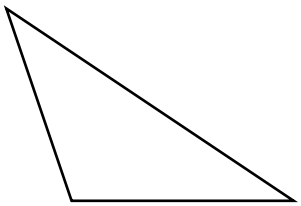

What is the total number of acute angles the triangle appears to have?

Enter your answer in the answer boxes at the top of the answer grid **and** completely fill the matching circles.

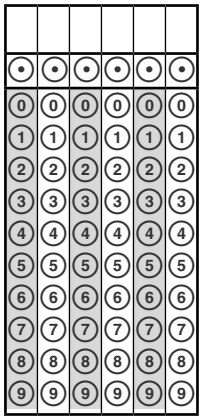

6 Which of these number lines shows a point that represents the location of $\frac{91}{100}$?

Ⓐ 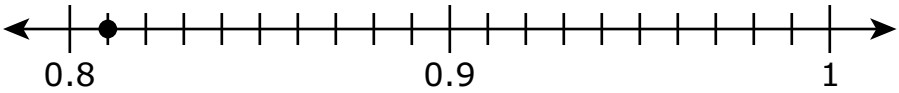

Ⓑ 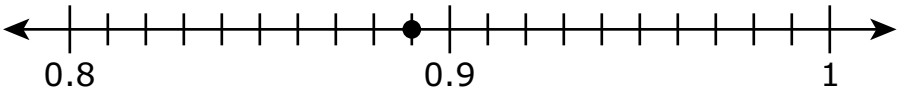

Ⓒ 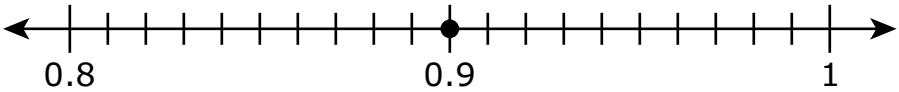

Ⓓ 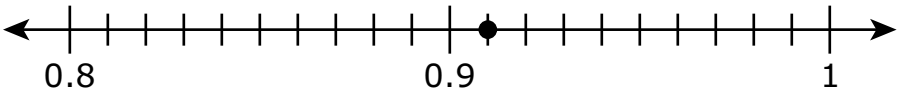

7 Which of these shapes appears to be a quadrilateral with perpendicular sides?

Ⓐ

Ⓑ



Ⓒ

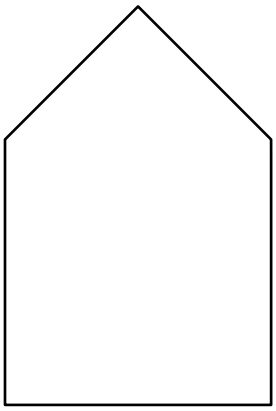

Ⓓ

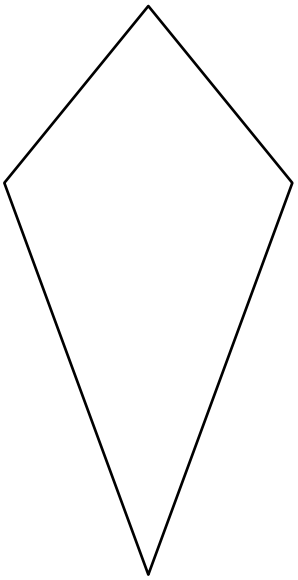

8 This dot plot shows the amounts of time, in hours, it took a student to complete ten different puzzles last week.

Completed Puzzles

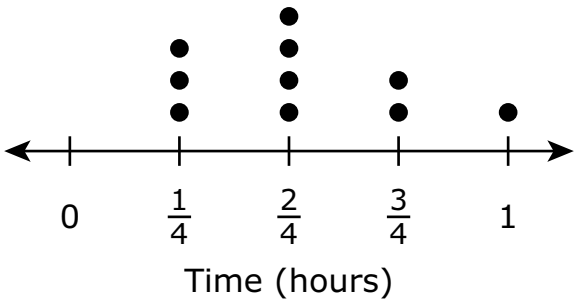

The three puzzles that took the greatest amount of time were completed by the student on Saturday.

What was the total amount of time, in hours, it took the student to complete the three puzzles on Saturday?

Ⓐ $2\frac{1}{2}$ hours

Ⓑ 2 hours

Ⓒ $\frac{3}{4}$ hour

Ⓓ $\frac{1}{4}$ hour

9 An expression is shown.

$$372{,}068 - 8{,}329$$

Which of these numbers is the difference of the expression?

Ⓐ 363,739

Ⓑ 364,341

Ⓒ 364,749

Ⓓ 366,341

10 Which of these is the measure of an angle that turns through $\frac{1}{3}$ of a circle?

Ⓐ 45°

Ⓑ 90°

Ⓒ 120°

Ⓓ 180°

11 Which of these shows three comparison statements that are all true?

Ⓐ

0.54	>	0.65
0.6	<	0.52
0.76	>	0.78

Ⓑ

0.54	>	0.52
0.6	<	0.78
0.76	>	0.65

Ⓒ

0.54	>	0.52
0.6	<	0.65
0.76	>	0.78

Ⓓ

0.54	>	0.78
0.6	<	0.52
0.76	>	0.65

12 Some angle measures are shown in this diagram.

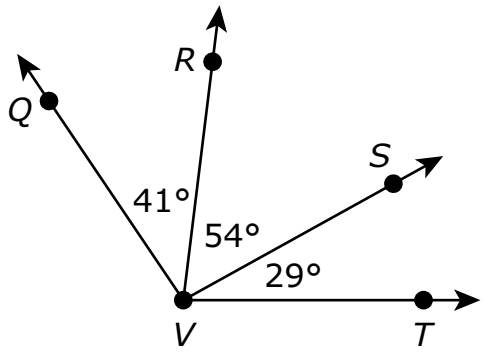

- Angle *QVR* has a measure of 41°.
- Angle *RVS* has a measure of 54°.
- Angle *SVT* has a measure of 29°.

Which of the following is the measure, in degrees, of angle *QVT*?

Ⓐ 124°

Ⓑ 114°

Ⓒ 95°

Ⓓ 83°

This question has three parts. Be sure to label each part of your response.

13 A doctor works in her office 5 days each week. Each day she works, she drives a total of 19 miles to and from her office.

A. What is the total distance, in miles, the doctor drives to and from her office each week? Show or explain how you got your answer.

B. The doctor worked 48 weeks last year.

What is the total distance, in miles, she drove to and from her office last year? Show or explain how you got your answer.

C. The doctor worked the same number of weeks each year for the last 7 years.

What is the total distance, in miles, the doctor drove to and from her office over the last 7 years? Show or explain how you got your answer.

Write your answers on the next page.

14 A metal bar has a mass of 5 kilograms.

Which of these is the mass, in **grams**, of the bar?

Ⓐ 50 grams

Ⓑ 500 grams

Ⓒ 5,000 grams

Ⓓ 50,000 grams

15 A rectangle has a width of 5 inches and a length of 4 inches.

Which of these equations shows the perimeter, in inches, of the rectangle?

Ⓐ $5 + 4 = 9$

Ⓑ $5 \times 4 = 20$

Ⓒ $2 + 5 \times 2 + 4 = 16$

Ⓓ $2 \times 5 + 2 \times 4 = 18$

16 Which of these statements about rounding the number 44,285 are true?

Select the **three** correct answers.

Ⓐ 44,285 rounded to the nearest **hundred** is 44,200.

Ⓑ 44,285 rounded to the nearest **hundred** is 44,300.

Ⓒ 44,285 rounded to the nearest **thousand** is 44,000.

Ⓓ 44,285 rounded to the nearest **thousand** is 45,000.

Ⓔ 44,285 rounded to the nearest **ten thousand** is 40,000.

Ⓕ 44,285 rounded to the nearest **ten thousand** is 50,000.

17 A group of friends are going to eat lunch in the cafeteria.

- At the cafeteria, a boxed lunch costs $7.
- Each friend in the group will buy a boxed lunch.

Which of these could be the **total** cost to buy boxed lunches for all the friends in the group?

Ⓐ $62

Ⓑ $84

Ⓒ $93

Ⓓ $97

This question has two parts.

18 A teacher is using multiplication to compare numbers.

Part A

The teacher says that 14 is 7 times as many as 2.

Which multiplication equation shows the teacher's comparison?

Ⓐ $14 = 7 \times 2$

Ⓑ $7 = 14 \times 2$

Ⓒ $2 = 7 \times 14$

Ⓓ $2 = 14 \times 7$

Part B

The teacher uses a comparison to describe this equation.

$$30 = 6 \times 5$$

Which of these could be the comparison the teacher used?

Ⓐ The number 5 is 6 times as many as the number 30.

Ⓑ The number 6 is 6 times as many as the number 30

Ⓒ The number 30 is 6 times as many as the number 5.

Ⓓ The number 30 is 6 times as many as the number 6.

19 Two friends bought a chocolate bar.

- One friend ate $\frac{2}{8}$ of the chocolate bar.
- The other friend ate $\frac{1}{8}$ of the chocolate bar.

In which fraction model does the shaded part represent the fraction of the chocolate bar that **remains**?

Ⓐ



Ⓑ



Ⓒ



Ⓓ

20 A market sells beans in bags. Each bag has $\frac{3}{4}$ pound of beans. How many pounds of beans are in 8 bags altogether?

Ⓐ $2\frac{3}{4}$

Ⓑ 6

Ⓒ $8\frac{3}{4}$

Ⓓ 15